Continuous Comprehensive Evaluation

प्रथम सत्र संकलित मूल्यमापन

Std-II Sub -Maths

Student Name:----------

School Name :---------- Division :------ Roll no:----

Cluster :---------- Block :---------- Dist :---------- Date : / /

Question	Written				Oral	Total marks	Teacher signature
	1	2	3	4	5		
Optain marks							
Marks	5	5	5	5	10	30	

(Instruction-Solve all questions, each subquestion having 1 mark)

Q.1.A) Count and write.

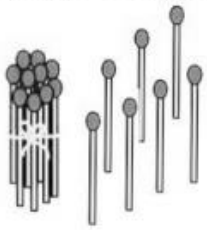

B) Write the name of given shape.

C) Solve this.

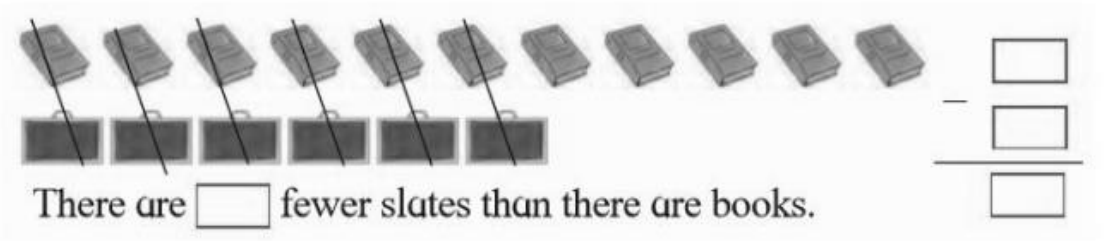

D) Count and write.

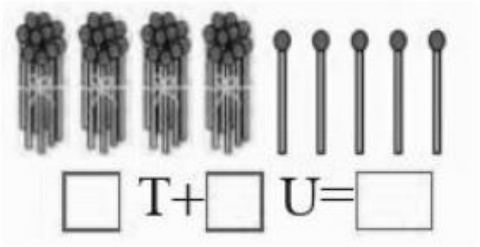

E) Write in the number - Sixty nine

Q.2.A) Do the addition.

T	U
1	6
+2	3

T	U
3	7
+	2

B) There were 24 books in cupboard and 12 more placed in it. How many books are now there in the cupboard?

C) Write the name of before and after month.

	May	

D) Today is Friday. Which day will be tomarrow ?

1) Sunday 2) Saturday 3) Monday 4) Thusday

Q.3.A) See the calendar and answer the questions.

Month - December					
Sun	1	8	15	22	29
Mon	2	9	16	23	30
Tue	3	10	17	24	31
Wed	4	11	18	25 Christmas	
Thu	5	12 Sports competition	19	26	
Fri	6	13 Sports competition	20 Drawing competition	27	
Sat	7 Picnic	14	21	28	

1) How many days in December month ?

Ans:----------

2) Which festival is on 25 December ?

Ans:----------

B) Write the proper number in the bracket.

Number	Small	big
26, 19		

C) There are 21 boys and 17 girls in the class.How many total students in the class ?

D) Write the number from given things.

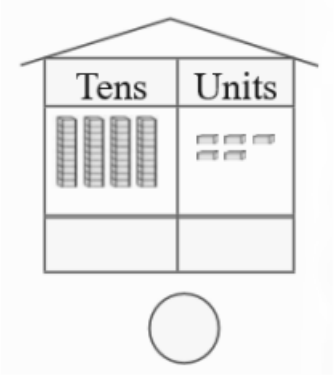

Q.4.A) Sachin give the feed for 15 cows among 27 cows. How many cows remain to give the feed?

B) Do Subtraction.

Tens	Units
6	8
− 3	4

Tens	Units
9	8
− 4	0

C) Write the given number in words. 46 ----------

D) Complet the table of 4.

Question Paper With Learning Outcomes (First Term)

Total marks:10 Question.5) Oral and practical Optain marks

Sr.n.	Instruction for teachers who takes oral & practical work	Students /groups				
		A	B	C	D	E
1.	Read the number with card	42	35	56	66	86
2.	Before & After numbers	25	54	50	67	44
3.	Using things addition practise	25+32	27+16	22+17	34+24	25+15
4.	Smaller and bigger number	55,58	12,64	28,56	55,63	60,54
5.	Number practise using beads	25	36	12	21	26
6.	Subtraction using things	19-15	17-16	35-10	38-16	29-19
7.	Makes 2 to 5 tables	-	-	-	-	-
8.	Names of month	-	-	-	-	-
9.	Show the shapes and guess, Circle,triangle,square etc	-	-	-	-	-
10.	Makes a numbers using chain	35	51	26	53	33

activeguruji.com